翰林B　數學　第5單元　答案　（1／2）

＿＿＿＿＿國小　＿＿＿＿＿學年度

評量卷　數學領域　一下　範圍：5、形狀與形體

一　年　＿＿＿班　＿＿＿號　姓名：＿＿＿＿＿＿＿　得分：＿＿＿＿＿

一　選出正確的答案。（每題3分，共15分）

1.（ ③ ）找出形狀、大小和  一樣的圖形？　① 

② 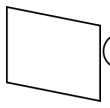 ③  。

2.（ ① ）右圖剪下的虛線圖形是下面哪一個？　① 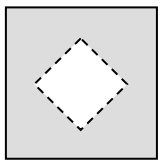

① ② ③ 。

3.（ ③ ）右邊的圖形是用哪2種圖形排出來的？ 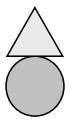

① 和 ② 和 

③ 和 。

4.（ ② ）下面哪一個圖形是用8塊三角形拼成的？

① 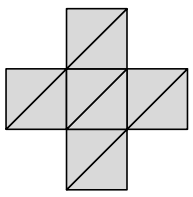

② 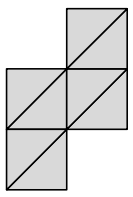

③ 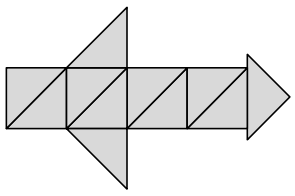 。

5.（ ② ）下面兩層合起來的形體全部有幾個 ？　① 11個　② 12個　③ 16個。

第一層	第二層
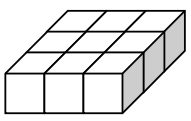	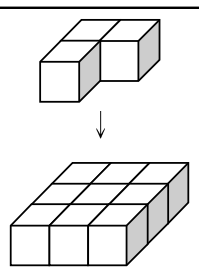

⇩

兩層合起來
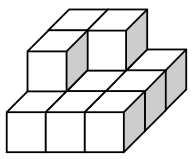

二　虛線的部分要放入哪一個圖形？連連看。（每線2分，共6分）

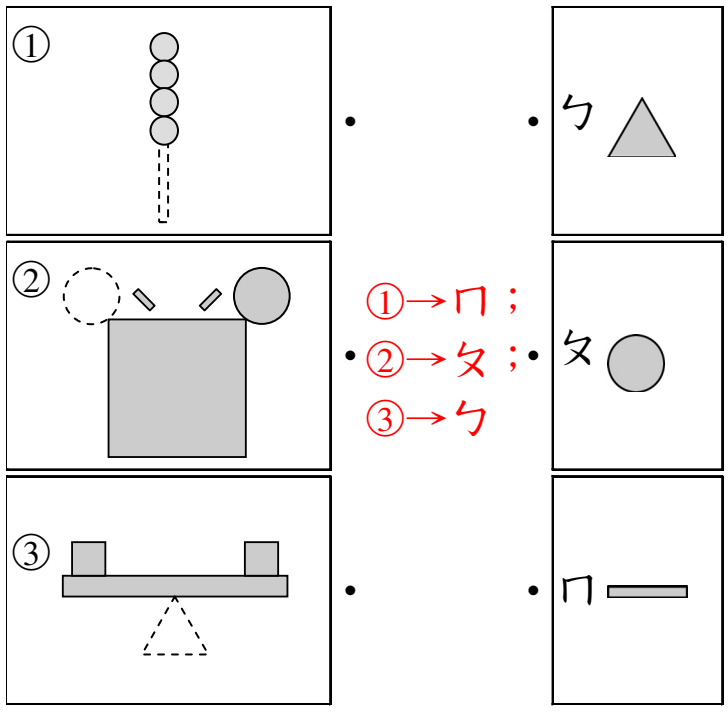

①→ㄇ；
②→ㄆ；
③→ㄅ

三　看圖做做看。（每答3分，共27分）

1. 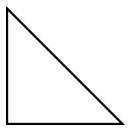 和 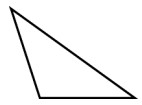 （ 是 ，不是 ）

一樣的圖形。（圈圈看）

2. 下圖虛線的部分可以放入哪一個圖形？在（　　）裡打✓。



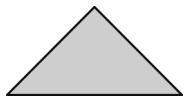

（　　）　（ ✓ ）

3. 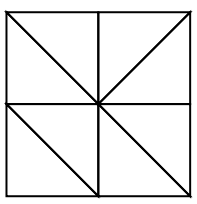

要拼成右邊的正方形，需要用到（ 8 ）個三角形。

4. 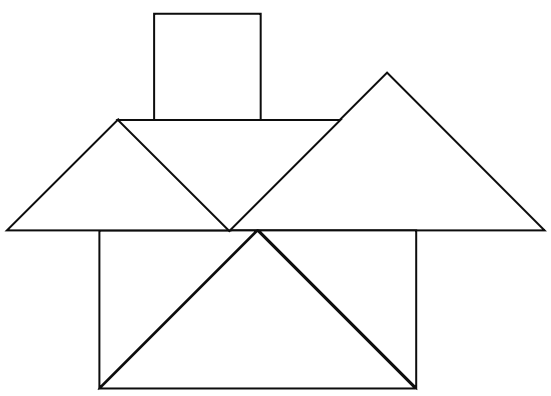

(1)上圖用了（ 6 ）個三角形。

(2)上圖用了（ 1 ）個正方形。

5. 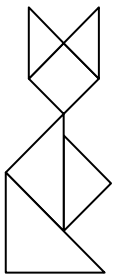

左邊的圖形是由

（　1　）個正方形和

（　5　）個三角形拼

成的。

6. 移動的是哪一個圖形？

（1）

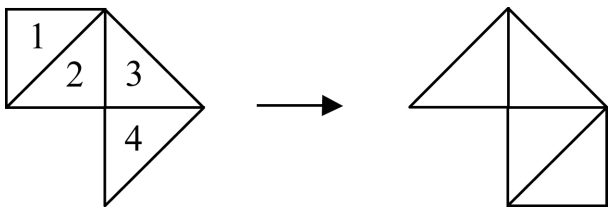

移動的圖形是（　1　）。

（2）

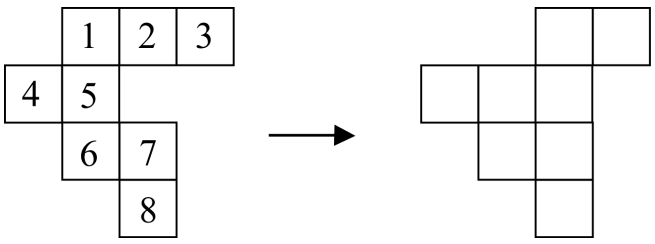

移動的圖形是（　1　）。

四 圈圈看。（每個2分，共20分）

1. 用2塊 可以拼出哪些形狀？圈圈看。

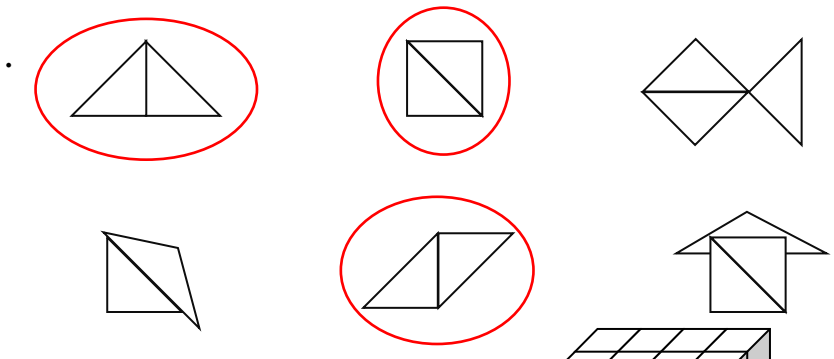

2. 下面哪些形體和 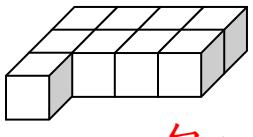 用一樣多的 ？圈圈看。 ㄅ、ㄈ圈起來

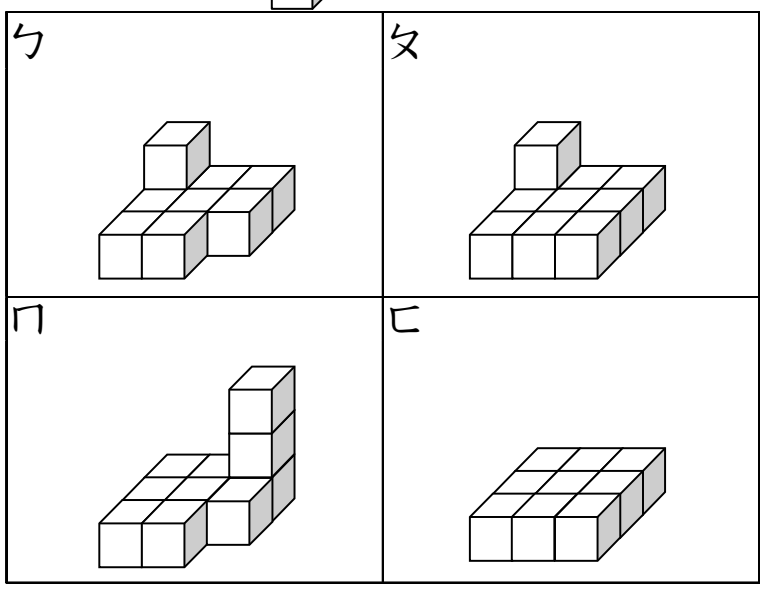

五 數數看，下面的形體用了幾個 ？（每題2分，共12分）

1. 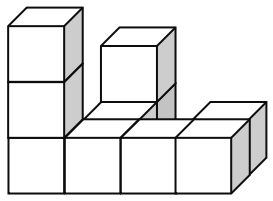

（　10　）個

2. 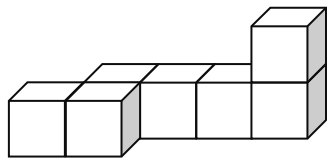

（　7　）個

3. 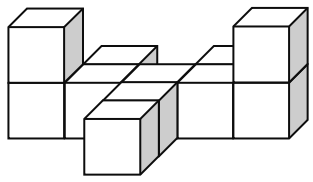

（　11　）個

4. 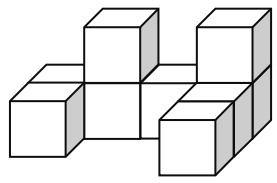

（　9　）個

5. 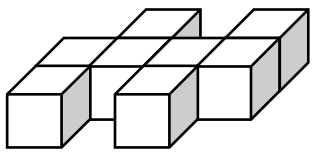

（　8　）個

6. 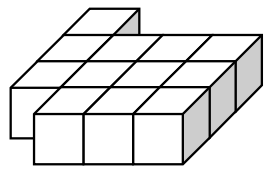

（　12　）個

六 把用8個 堆成的形體打✓，不是的打╳。（每題2分，共8分）

1. 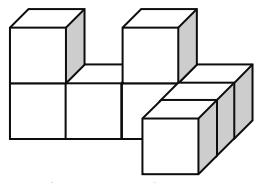

（ ✓ ）

2. 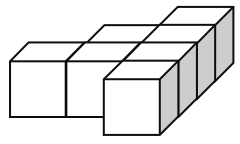

（ ╳ ）

3. 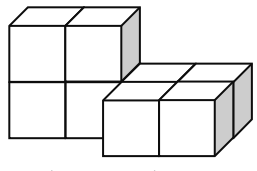

（ ✓ ）

4. 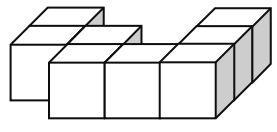

（ ✓ ）

七 挑戰題。（每個3分，共12分）

▲ 用2個大三角形、2個小三角形和1個正方形，可以拼出哪些圖形？圈圈看。②、③圈起來

①

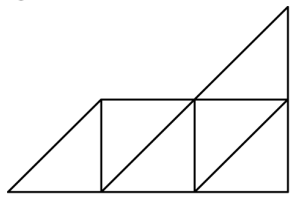

②

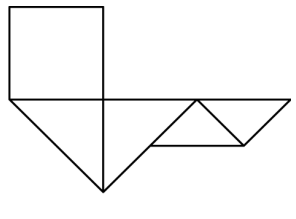

③

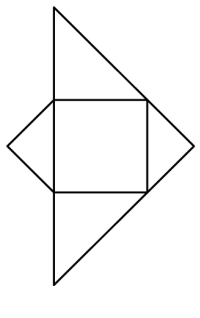
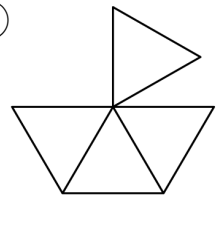
④