_____國小　_____學年度

評量卷　數學領域　一下　範圍：5、形狀與形體

一　年　_____班　_____號　姓名：_____　得分：_____

一　選出正確的答案。(每題 3 分，共 15 分)

1. (③) 找出形狀、大小和 一樣的圖形？ ① ② ③  。

2. (①) 右圖剪下的虛線圖形是下面哪一個？ 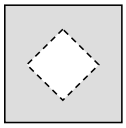 ① ② ③ 。

3. (③) 右邊的圖形是用哪 2 種圖形排出來的？

① 和 ② 和

③ 和 。

4. (②) 下面哪一個圖形是用 8 塊三角形拼成的？

① 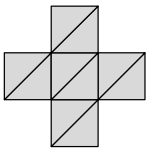 ② 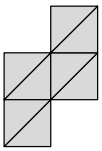

③ 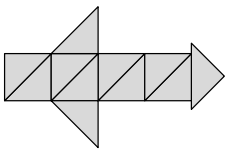 。

5. (②) 下面兩層合起來的形體全部有幾個 ？ ① 11 個 ② 12 個 ③ 16 個 。

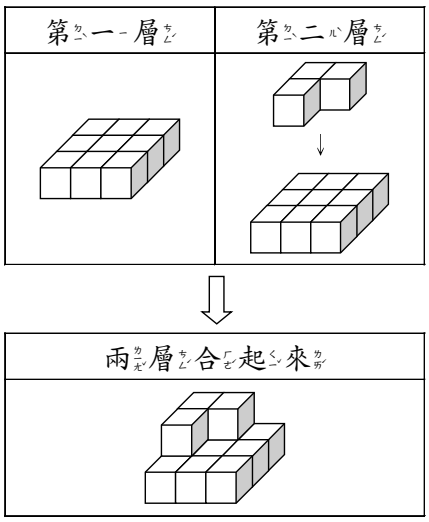

二　虛線的部分要放入哪一個圖形？連連看。(每線 2 分，共 6 分)

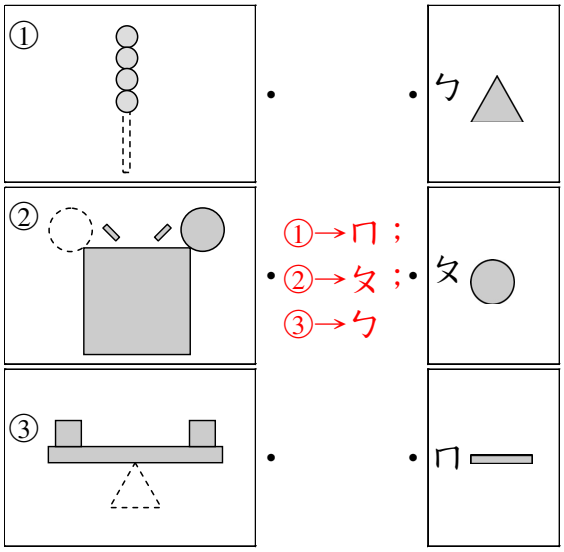

①→ㄇ；
②→ㄆ；
③→ㄅ

三　看圖做做看。(每答 3 分，共 27 分)

1. 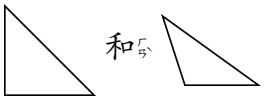 和 (是 ， 不是)

一樣的圖形。(圈圈看)

2. 下圖虛線的部分可以放入哪一個圖形？在 ( ) 裡打✓。

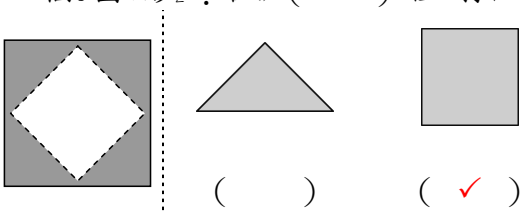

( ) (✓)

3. 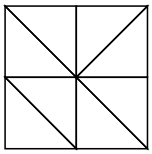

要拼成右邊的正方形，需要用到(8)個三角形。

4. 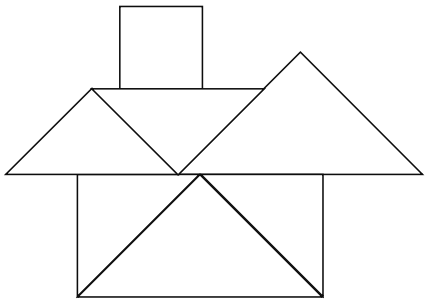

(1)上圖用了(6)個三角形。

(2)上圖用了(1)個正方形。

5. 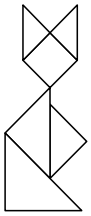

左邊的圖形是由

(1) 個正方形和

(5) 個三角形拼

成的。

6. 移動的是哪一個圖形？

(1)

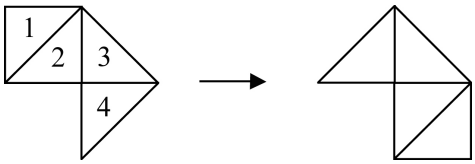

移動的圖形是 (1)。

(2)

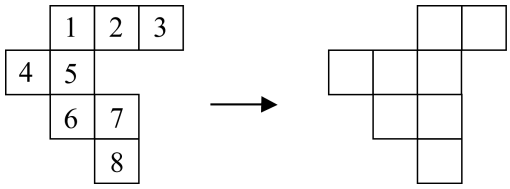

移動的圖形是 (1)。

四 圈圈看。(每個 2 分，共 20 分)

1. 用 2 塊 可以拼出哪些形狀？圈圈看。

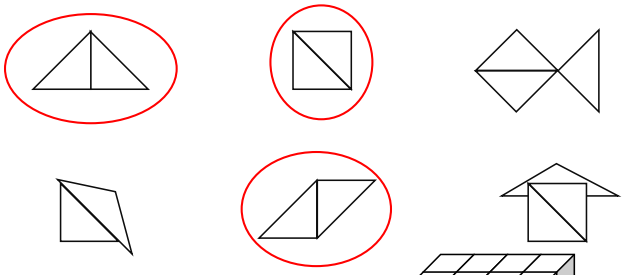

2. 下面哪些形體和 用一樣多的 ？圈圈看。 ㄅ、ㄈ圈起來

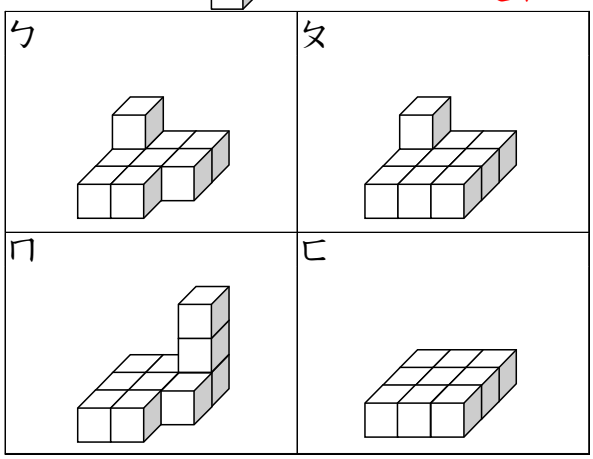

五 數數看，下面的形體用了幾個 ？(每題 2 分，共 12 分)

1. 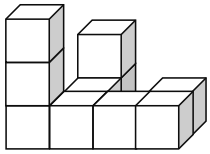

(10) 個

2. 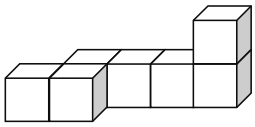

(7) 個

3. 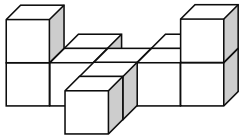

(11) 個

4. 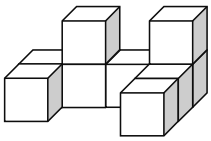

(9) 個

5. 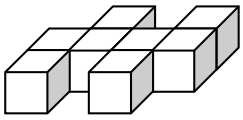

(8) 個

6. 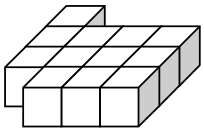

(12) 個

六 把用 8 個 堆成的形體打✓，不是的打╳。(每題 2 分，共 8 分)

1. 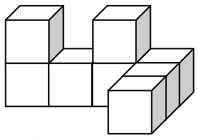

(✓)

2. 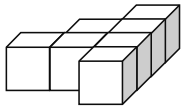

(╳)

3. 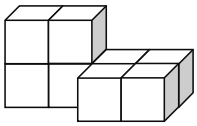

(✓)

4. 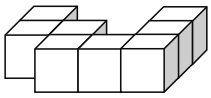

(✓)

七 挑戰題。(每個 3 分，共 12 分)

▲ 用 2 個大三角形、2 個小三角形和 1 個正方形，可以拼出哪些圖形？圈圈看。②、③圈起來

①

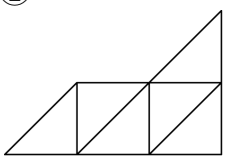

②

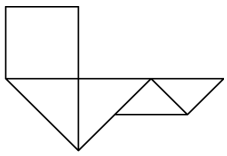

③

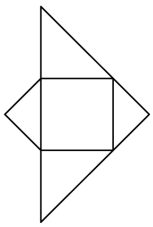
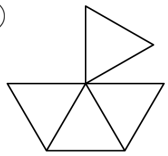
④