南一門市 數學 第09回

5. 圖形和形體 (1)

_____年_____班_____號

姓名_____

一 下面的七巧板，分別是用哪張圖卡拼成？在（　）裡填入代號。每格 5 分，共 20 分

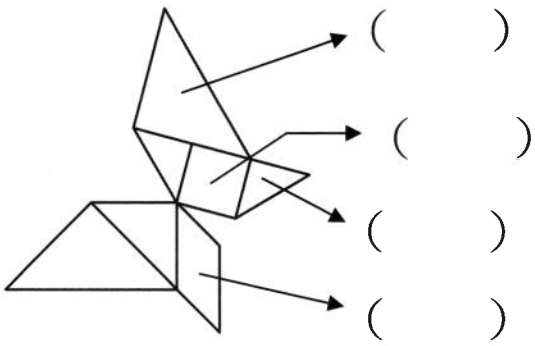

（　　）

（　　）

（　　）

（　　）

ㄅ.

ㄆ.

ㄇ.

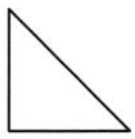

ㄈ.

二 上排的圖形是從哪裡剪下來的？連連看。每答 4 分，共 12 分

(1)

(2)

(3)



三 移動了哪一片圖卡，才能變成右邊的圖形？在（　）裡填入代號。每題 4 分，共 8 分

(1)

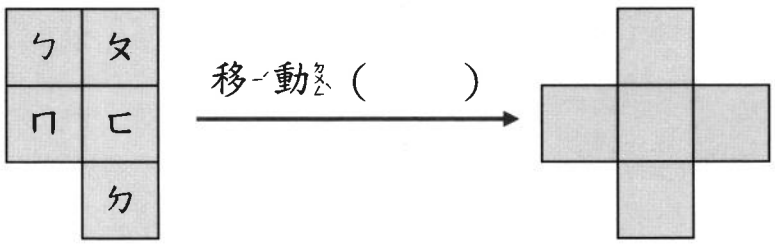

(2)

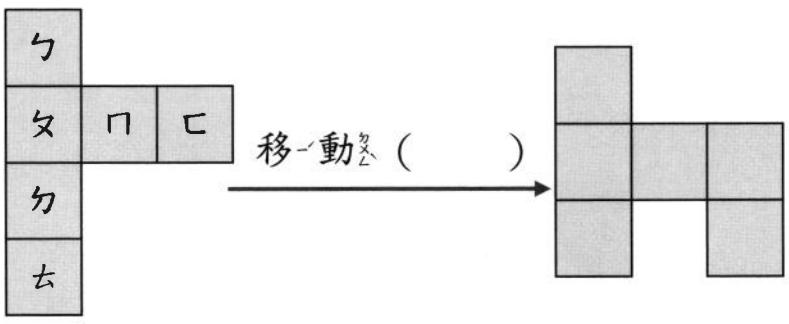

四 下面圖形各是用幾片 ◺ 排成的？填一填。每題 5 分，共 20 分

(1)

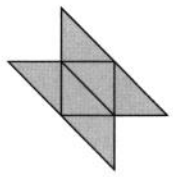

（　　）片

(2)

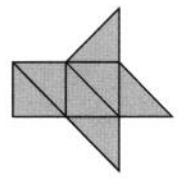

（　　）片

(3)

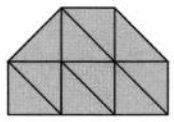

（　　）片

(4)

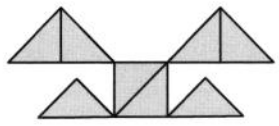

（　　）片

五 下面形體各是用幾個 ▢ 堆成的？填一填。每題 5 分，共 30 分

(1)

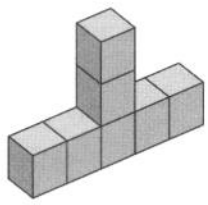

（　　）個

(2)

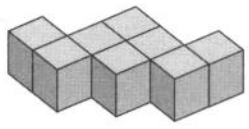

（　　）個

(3)



（　　）個

(4)



（　　）個

(5)

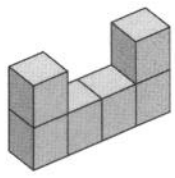

（　　）個

(6)

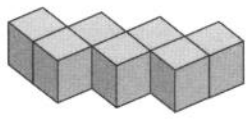

（　　）個

六 用 5 塊 □ 拼出兩種不同的圖形，並畫下來。每答 5 分，共 10 分