南一門市 數學 第10回

5. 圖形和形體 (2)

_____年_____班_____號

姓名_____

一 移動哪一片三角形圖卡，才能變成右邊的圖形？在□中打V。每題6分，共18分

(1)

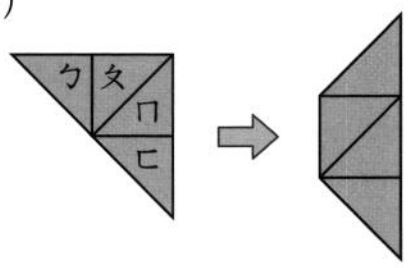

□ ㄅ □ ㄆ

□ ㄇ □ ㄈ

(2)

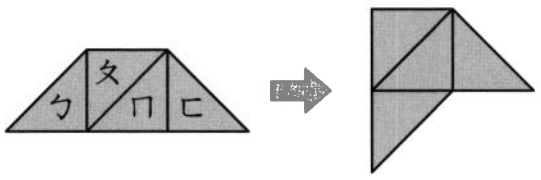

□ ㄅ □ ㄆ

□ ㄇ □ ㄈ

(3)

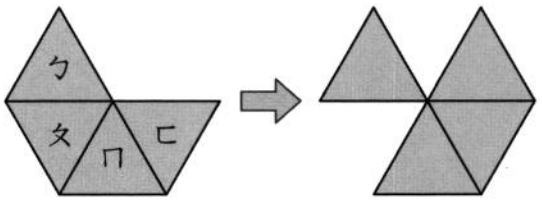

□ ㄅ □ ㄆ

□ ㄇ □ ㄈ

二 下面形體各是用幾個 堆成的？填一填。每題6分，共36分

(1)

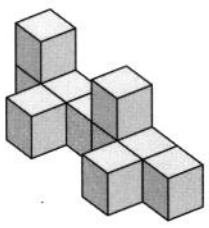

(　　) 個

(2)

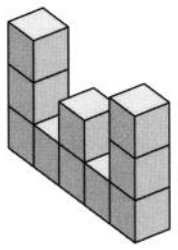

(　　) 個

(3)



(　　) 個

(4)



(　　) 個

(5)



(　　) 個

(6)

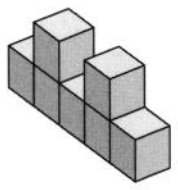

(　　) 個

三 要放入哪一個圖形，才能完成左邊的圖？圈圈看。

共4分

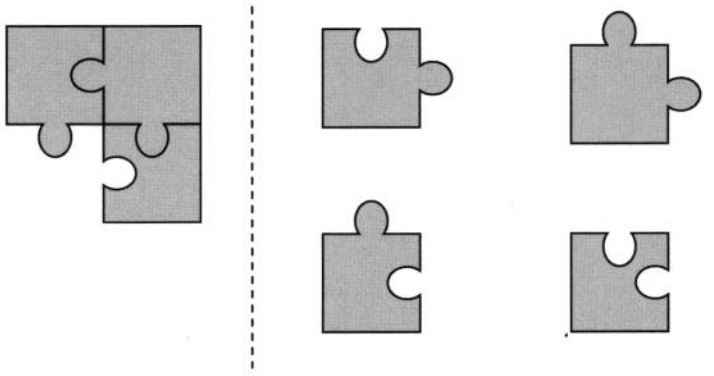

四 將合起來是 14 個 的形體連起來。每答6分，共18分

(1)



•

(2)

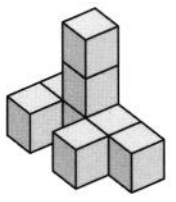

•

(3)



•

ㄅ.

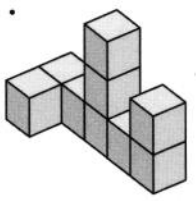

•

ㄆ.

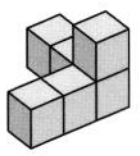

•

ㄇ.

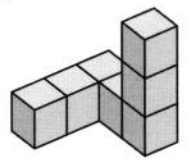

•

五 下面圖形各是用幾片 排成的？填一填。每題6分，共24分

(1)

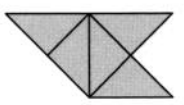

(　　) 片

(2)

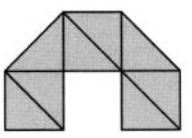

(　　) 片

(3)

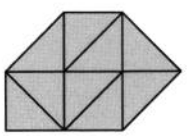

(　　) 片

(4)

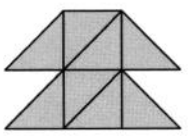

(　　) 片