康軒門市 數學 第05回 (1/2)

三、圖形與分類

得分

找找看，剪下來的是哪一張圖卡？用代號填填看。

(每題2分，共16分)

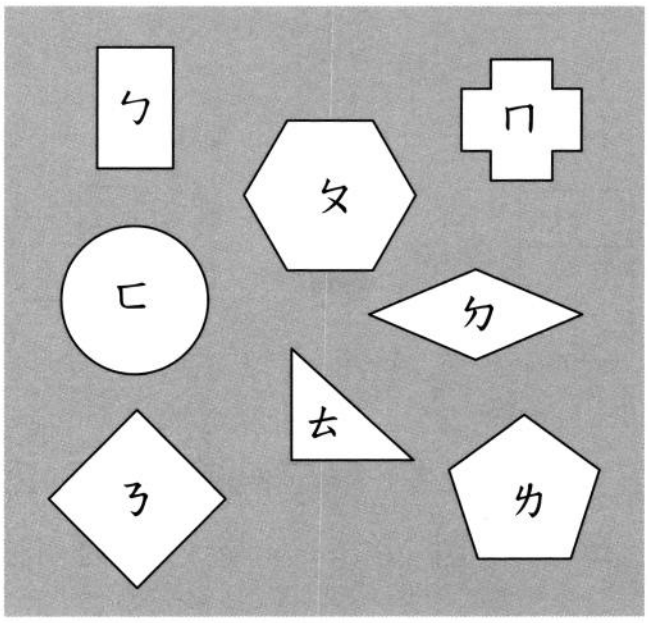

(1)



( )

(2)

( )

(3)



( )

(4)



( )

(5)

( )

(6)

( )

(7)



( )

(8)



( )

把下面的圖形分成兩組，可以怎麼分？寫出兩種分法。(每題9分，共18分)



(1)分法1：用(　　)分。

	(　　)個
	(　　)個

(2)分法2：用(　　)分。

	(　　)個
	(　　)個

每種水果有幾顆？畫○記記看。

(畫○8分，其餘每個答案1分，共14分)



(1) 有(　　)顆，有(　　)顆，有(　　)顆，有(　　)顆。

(2)哪一種水果最多？

(　，　，　，　)

(3)哪一種水果最少？

(　，　，　，　)

有著作權・侵害必究

數數看，各要用幾塊▭排成？(每題3分，共12分)

(1) (　　)塊

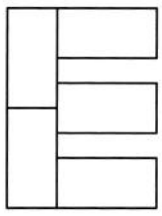

(2) (　　)塊

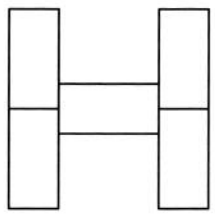

(3) (　　)塊

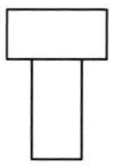

(4) (　　)塊

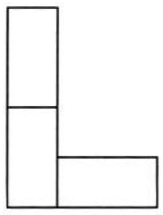

數數看，各要用幾塊◣排成？(每題3分，共12分)

(1) (　　)塊



(2) (　　)塊

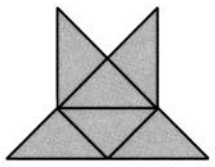

(3) (　　)塊

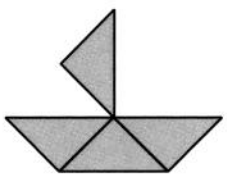

(4) (　　)塊

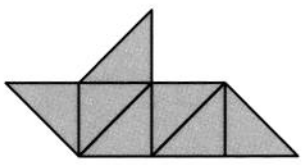

6 移動了哪一塊圖形板？把它塗上顏色。(每題3分，共9分)

(1)



(2)

(3)



下面是投球比賽的紀錄，投中一球得1分，看圖回答問題。(每格1分，共11分)

(一個●表示投中1球)

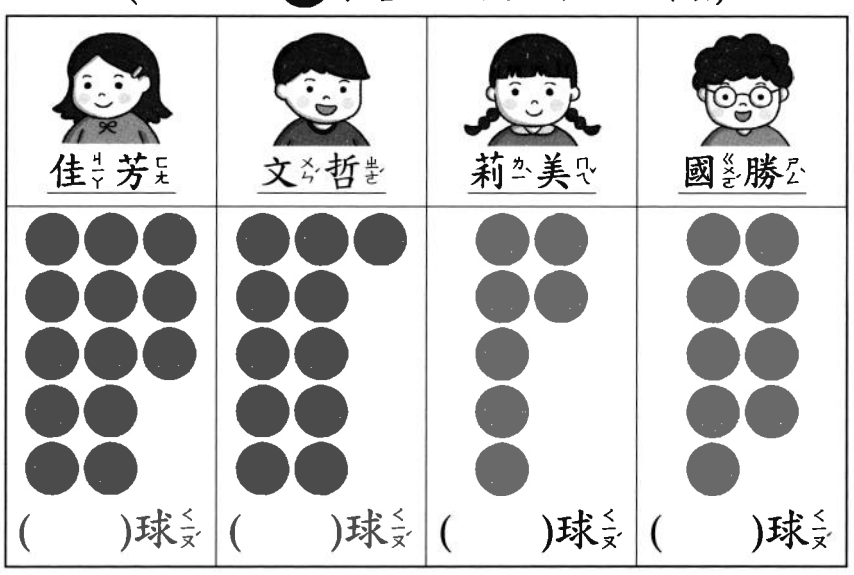

(1)一共有(　　)個人參加投球比賽。

(2)佳芳共得(　　)分，文哲共得(　　)分，莉美共得(　　)分，國勝共得(　　)分。

(3)誰的分數最高？(　　)

(4)誰的分數最低？(　　)

下面是全班票選最喜歡的球類運動紀錄，一個人投1票，看圖回答問題。(每個答案1分，共8分)

籃球	正正	(　　)票
躲避球	正正下	(　　)票
羽毛球	正丅	(　　)票
足球	正正	(　　)票

(1)最多人喜歡的球類運動是

(　　，　　，　　，　　)。

(2)最少人喜歡的球類運動是

(　　，　　，　　，　　)。

(3)哪兩項球類運動的票數一樣多？

(　　，　　，　　，　　)

有著作權・侵害必究