_____國小 _____學年度

評量卷　數學領域　一下　範圍：5、形狀與形體

一　年 _____班 _____號　姓名：_____　得分：_____

一 虛線內要放入哪一個圖形？連連看。（每條線 5 分，共 20 分）

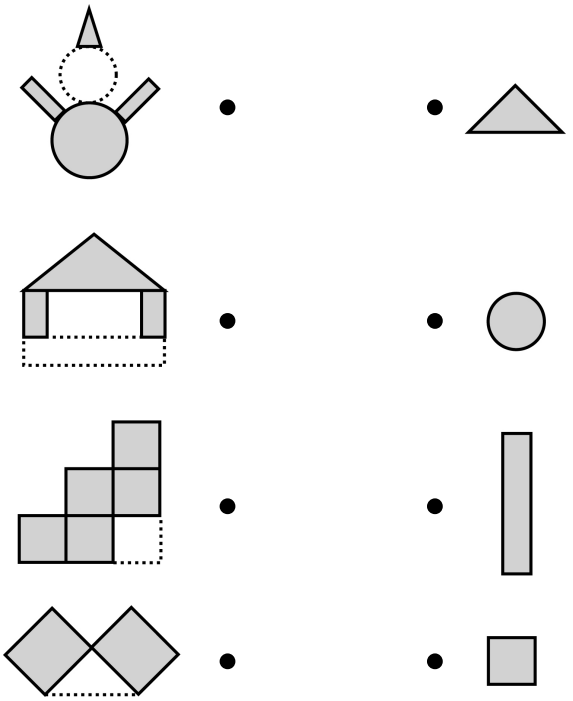

二 圈出和最左邊形狀、大小一樣的圖形。（每題 6 分，共 18 分）

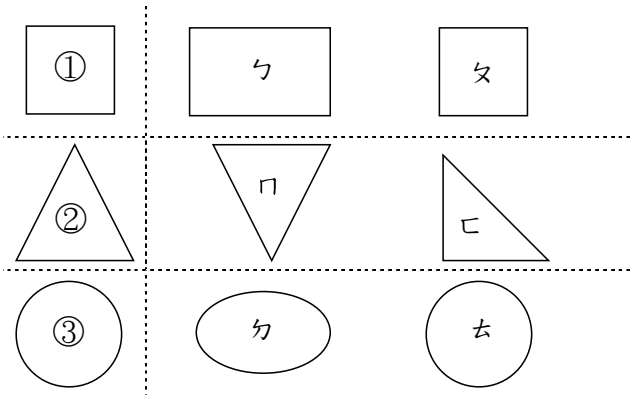

三 找出移動的哪一個圖形，並在圖形上打✓。（每題 6 分，共 12 分）

1.

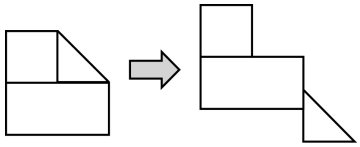

2.

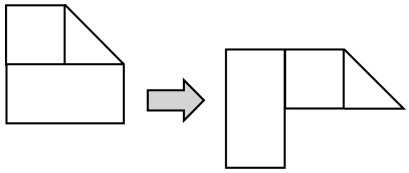

四 哪些圖是用 2 個 拼出來的？圈圈看。（每個 2 分，共 8 分）

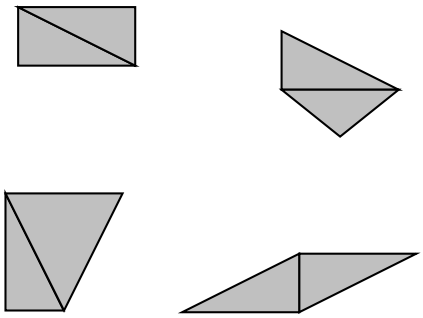

五 哪些是用 8 個 排出來的？圈圈看。（每個 3 分，共 12 分）

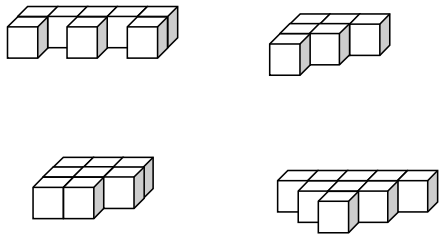

六 數一數，用了幾個 ？

（每題 5 分，共 30 分）

1.

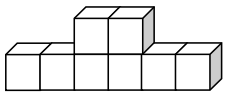

（　　）個

2.

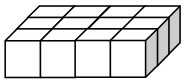

（　　）個

3.

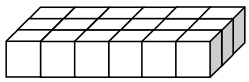

（　　）個

4.

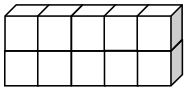

（　　）個

5.

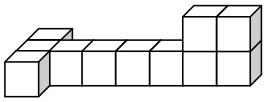

（　　）個

6.

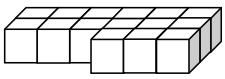

（　　）個