_____國小　_____學年度

評量卷　數學領域　一下　範圍：5、形狀與形體

一　年　_____班　_____號　姓名：_____　得分：_____

一　選出正確的答案。（每題3分，共15分）

1.（　　）找出形狀、大小和  一樣的圖形？　① 

② 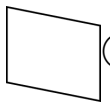 ③  。

2.（　　）右圖剪下的虛線圖形是下面哪一個？　① ② ③ 。

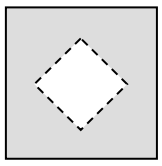

3.（　　）右邊的圖形是用哪2種圖形排出來的？

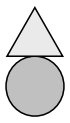

① 和 ② 和 

③ 和 。

4.（　　）下面哪一個圖形是用8塊三角形拼成的？

① 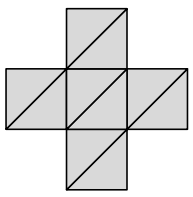

② 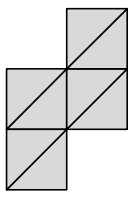

③ 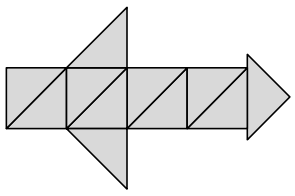 。

5.（　　）下面兩層合起來的形體全部有幾個？　① 11個　② 12個　③ 16個。

第一層	第二層
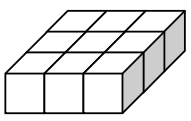	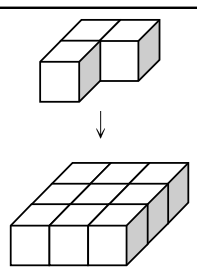

⇩

兩層合起來
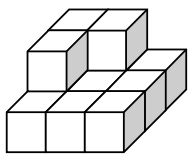

二　虛線的部分要放入哪一個圖形？連連看。（每線2分，共6分）

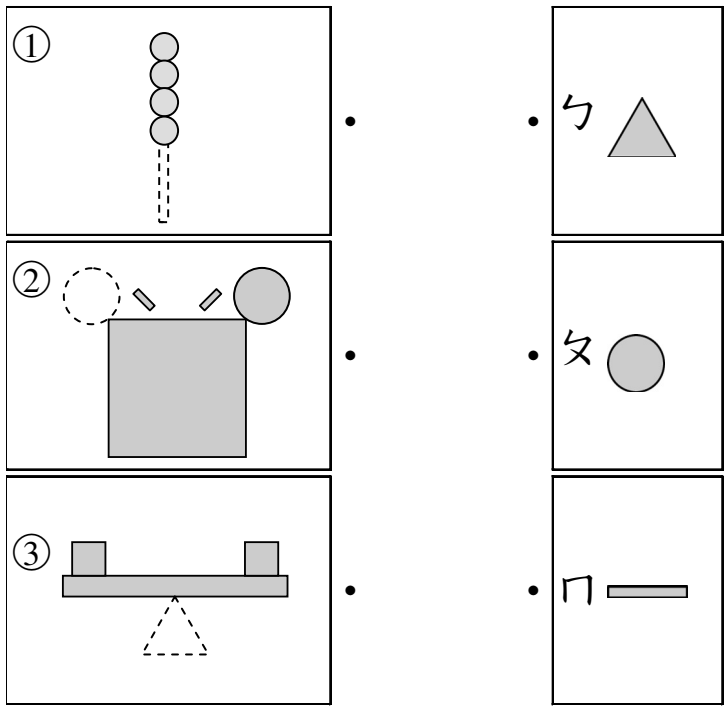

三　看圖做做看。（每答3分，共27分）

1. 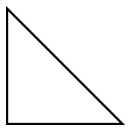 和 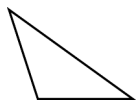 （　是　，　不是　）

一樣的圖形。（圈圈看）

2. 下圖虛線的部分可以放入哪一個圖形？在（　　）裡打✓。



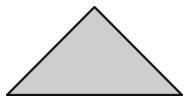



（　　）　（　　）

3. 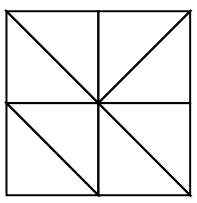

要拼成右邊的正方形，需要用到（　　）個三角形。

4. 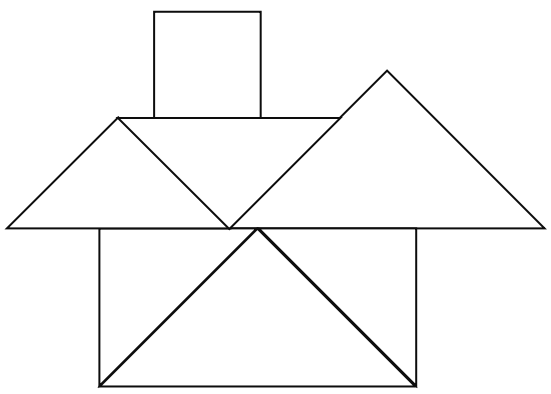

(1)上圖用了（　　）個三角形。

(2)上圖用了（　　）個正方形。

5. 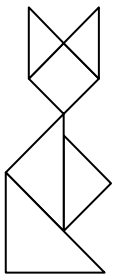

左邊的圖形是由

（　　）個正方形和

（　　）個三角形拼

成的。

6. 移動的是哪一個圖形？

（1）

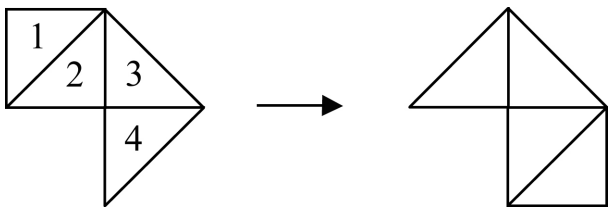

移動的圖形是（　　）。

（2）

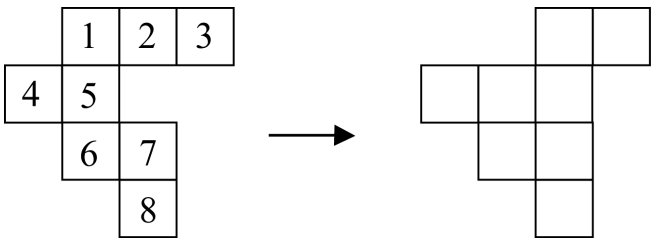

移動的圖形是（　　）。

四 圈圈看。（每個 2 分，共 20 分）

1. 用 2 塊 可以拼出哪些形狀？圈圈看。

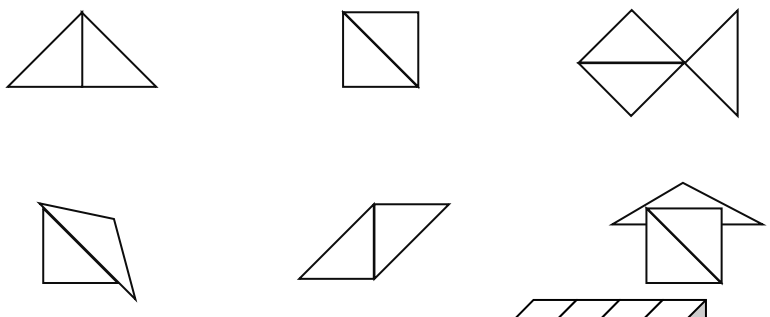

2. 下面哪些形體和 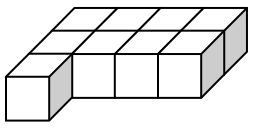 用一樣多的 ？圈圈看。

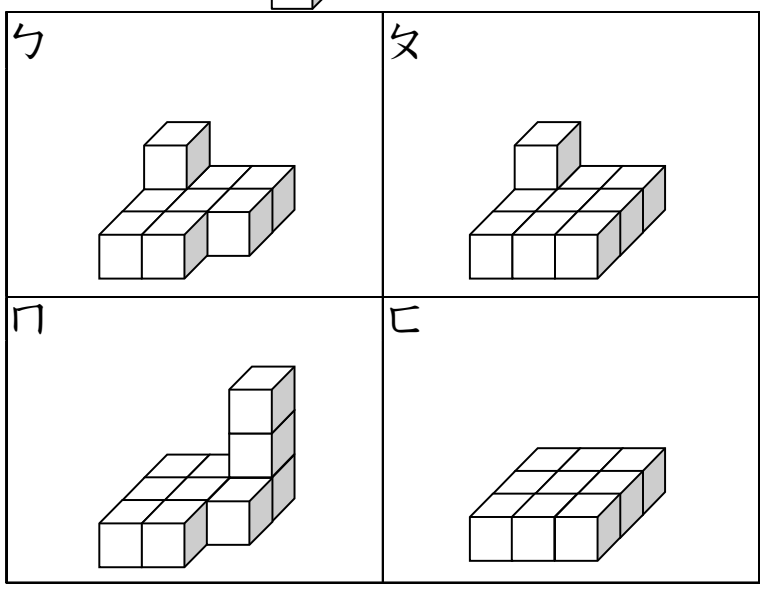

五 數數看，下面的形體用了幾個 ？（每題 2 分，共 12 分）

1. 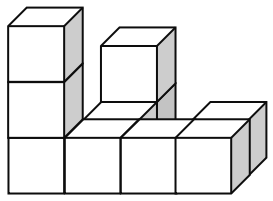

（　　）個

2. 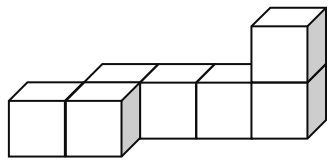

（　　）個

3. 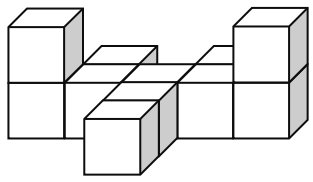

（　　）個

4. 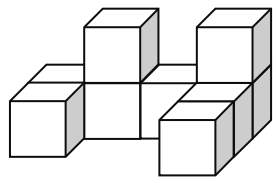

（　　）個

5. 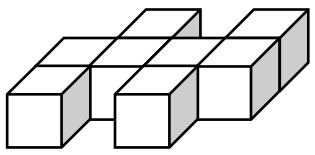

（　　）個

6. 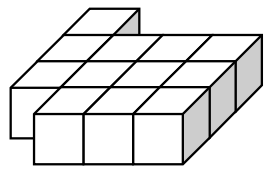

（　　）個

六 把用 8 個 堆成的形體打✓，不是的打╳。（每題 2 分，共 8 分）

1. 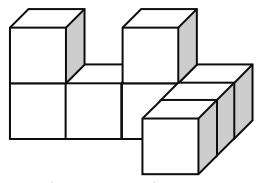

（　　）

2. 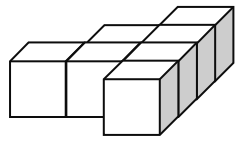

（　　）

3. 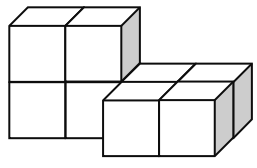

（　　）

4. 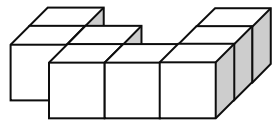

（　　）

七 挑戰題。（每個 3 分，共 12 分）

▲ 用 2 個大三角形、2 個小三角形和 1 個正方形，可以拼出哪些圖形？圈圈看。

①

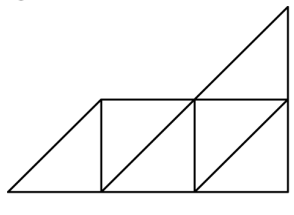

②

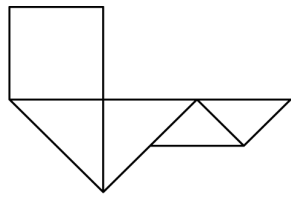

③

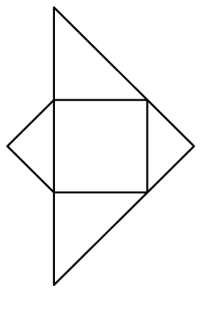
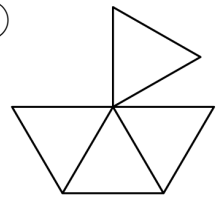
④