_____國小　_____學年度

評量卷　數學領域　一下　範圍：5、形狀與形體

一　年　_____班　_____號　姓名：_____　得分：_____

一　選出正確的答案。(每題 3 分，共 15 分)

1. (　　) 找出形狀、大小和 一樣的圖形？　①

② ③  。

2. (　　) 右圖剪下的虛線圖形是下面哪一個？ 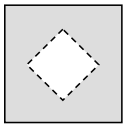

① ② ③ 。

3. (　　) 右邊的圖形是用哪 2 種圖形排出來的？

① 和 ② 和

③ 和 。

4. (　　) 下面哪一個圖形是用 8 塊三角形拼成的？

① 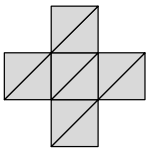 ② 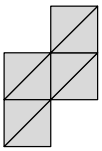

③ 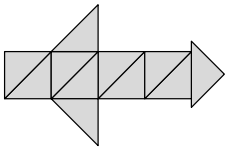 。

5. (　　) 下面兩層合起來的形體全部有幾個 ？　① 11 個　② 12 個　③ 16 個。

第一層	第二層
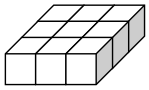	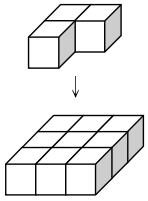

⇩

兩層合起來
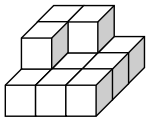

二　虛線的部分要放入哪一個圖形？連連看。(每線 2 分，共 6 分)

① 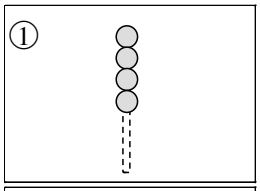

② 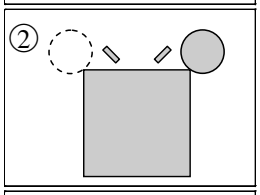

③ 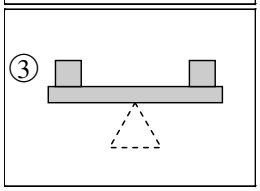

ㄅ

ㄆ

ㄇ

三　看圖做做看。(每答 3 分，共 27 分)

1. 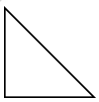 和 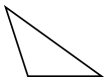 　(　是　，　不是　)

一樣的圖形。(圈圈看)

2. 下圖虛線的部分可以放入哪一個圖形？在 (　　) 裡打✓。





(　　)　　(　　)

3. 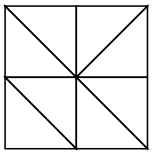

要拼成右邊的正方形，需要用到(　　)個三角形。

4. 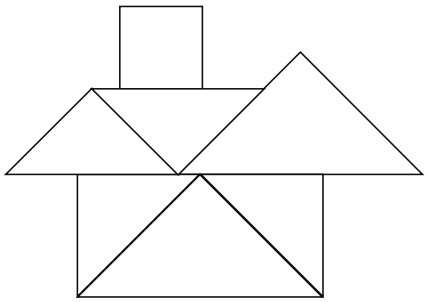

(1) 上圖用了(　　)個三角形。

(2) 上圖用了(　　)個正方形。

5. 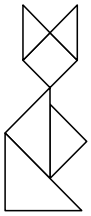

左邊的圖形是由

(　　) 個正方形和

(　　) 個三角形拼

成的。

6. 移動的是哪一個圖形？

(1)

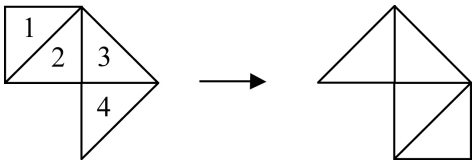

移動的圖形是 (　　)。

(2)

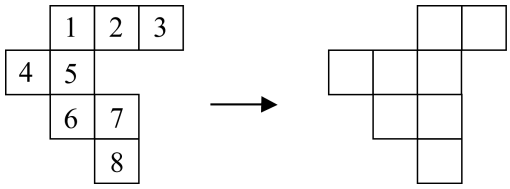

移動的圖形是 (　　)。

四 圈圈看。(每個 2 分，共 20 分)

1. 用 2 塊 可以拼出哪些形狀？圈圈看。

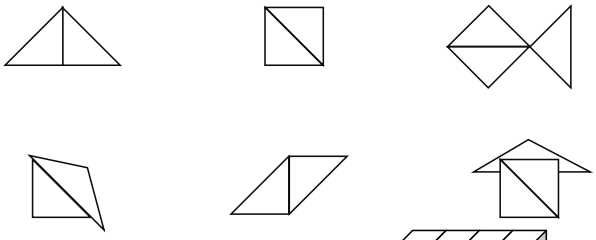

2. 下面哪些形體和 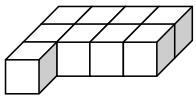 用一樣多的 ？圈圈看。

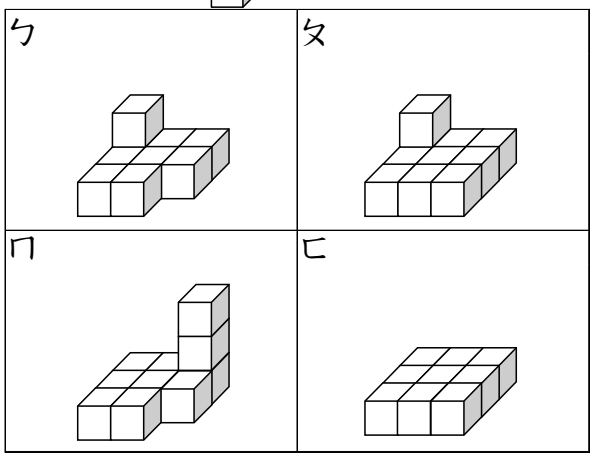

五 數數看，下面的形體用了幾個 ？(每題 2 分，共 12 分)

1. 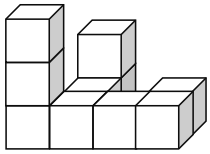

(　　) 個

2. 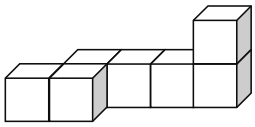

(　　) 個

3. 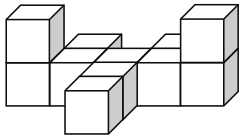

(　　) 個

4. 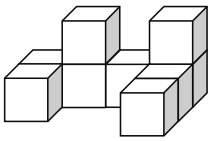

(　　) 個

5. 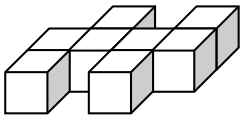

(　　) 個

6. 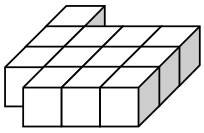

(　　) 個

六 把用 8 個 堆成的形體打✓，不是的打╳。(每題 2 分，共 8 分)

1. 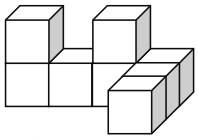

(　　)

2. 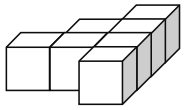

(　　)

3. 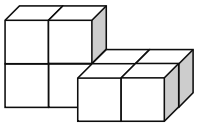

(　　)

4. 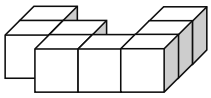

(　　)

七 挑戰題。(每個 3 分，共 12 分)

▲ 用 2 個大三角形、2 個小三角形和 1 個正方形，可以拼出哪些圖形？圈圈看。

①

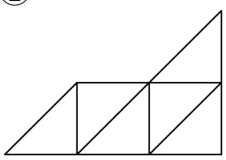

②

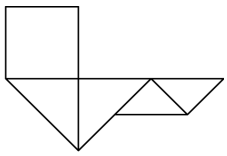

③

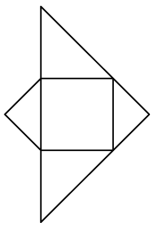
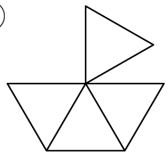
④