翰林門市 數學 第10回 (1/2)

5、形狀與形體

得分

下面沿著虛線剪下來的圖形各是哪一個呢？請連連看：每題 3 分，共 12 分

1.



2.



3.



4.



ㄅ

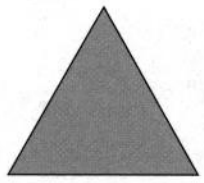

ㄆ



ㄇ

ㄈ

阿琪要把五巧板拼好，並收到盒子裡，下面剩下的幾塊圖形應該要放在哪個位置呢？填入代號：每題 3 分，共 18 分

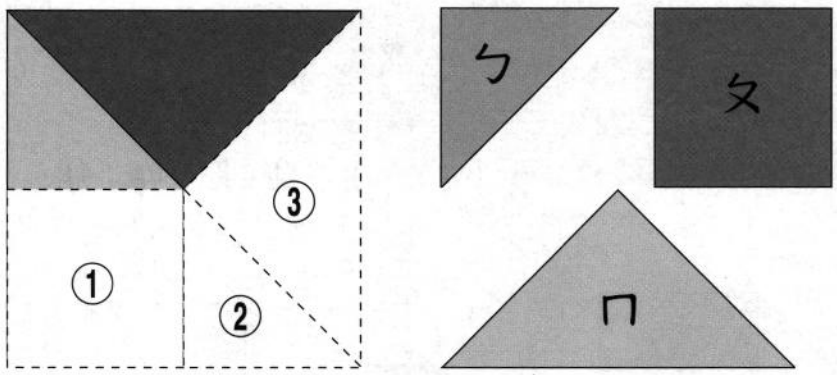

▲ 五巧板共有（　　）個正方形，（　　）個小三角形，和（　　）個大三角形。

① 的位置要放入（　　）。

② 的位置要放入（　　）。

③ 的位置要放入（　　）。

下面的圖形是用幾個 ▲ 拼出來的？數數看：每題 3 分，共 18 分

1.



（　　）個

2.

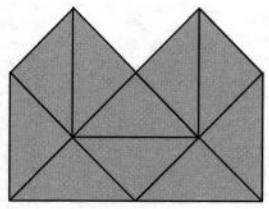

（　　）個

3.

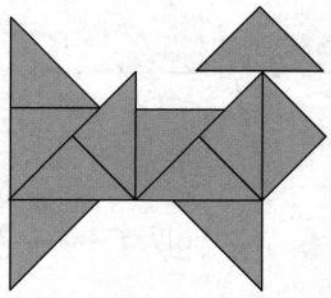

（　　）個

4.

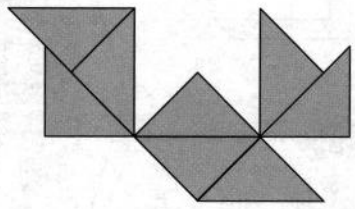

（　　）個

5.

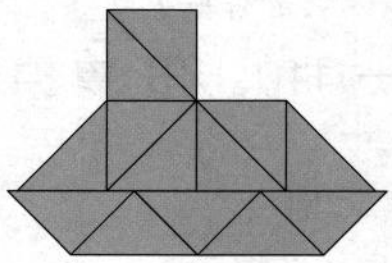

（　　）個

6.

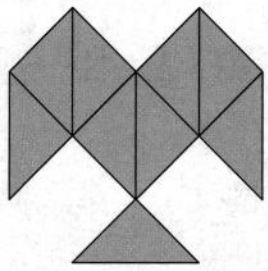

（　　）個

下面哪些圖形是用 10 個 ■ 排成的？圈圈看：每題 3 分，共 18 分

ㄅ

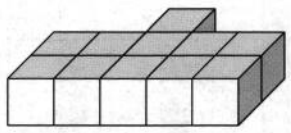

ㄆ

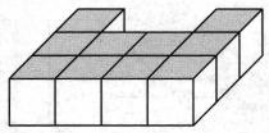

ㄇ

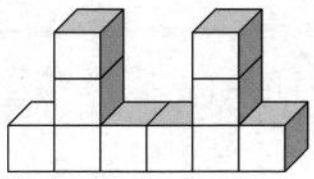

ㄈ

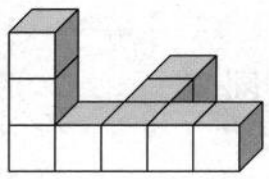

ㄉ

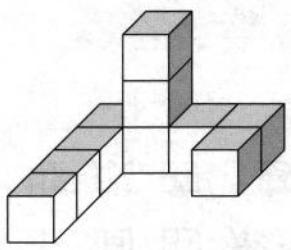

ㄊ

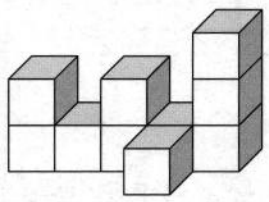

版權所有 · 翻印必究
【背面還有試題】

左邊的圖形移動哪一塊後，會變成右邊的圖形？填入代號：每題 4 分，共 16 分

1.

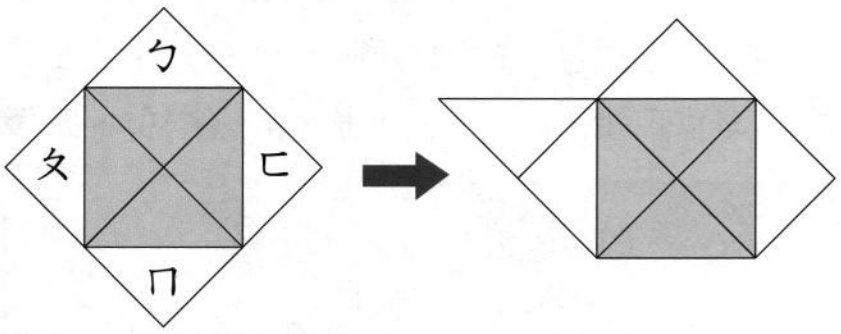

移動圖形（　　）

2.

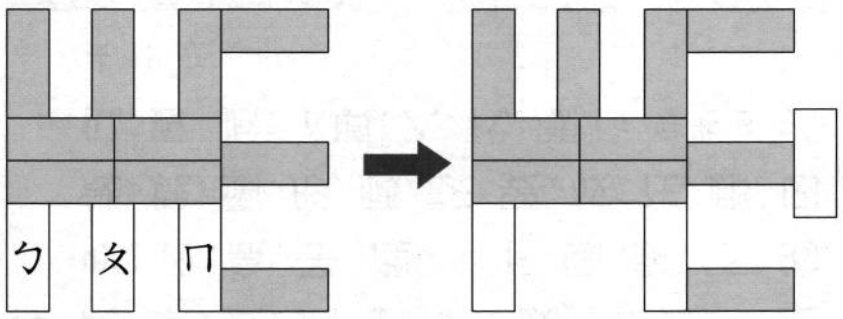

移動圖形（　　）

3.

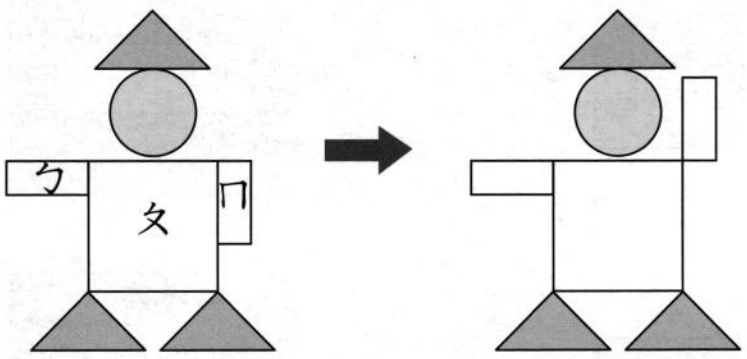

移動圖形（　　）

4.

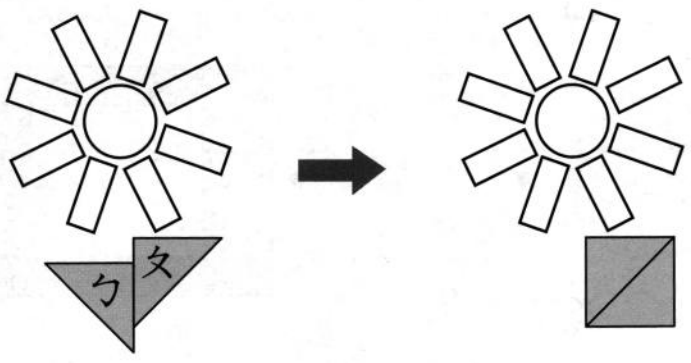

移動圖形（　　）

下面的形體各是用幾個 堆成的？數數看：每題 2 分，共 12 分

1.

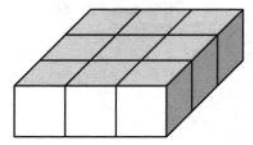

（　　）個

2.

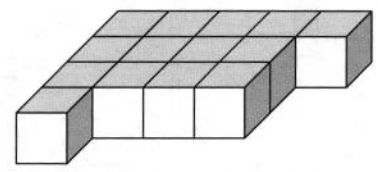

（　　）個

3.

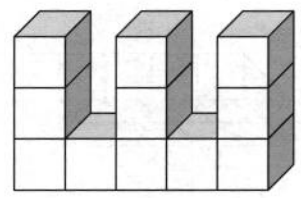

（　　）個

4.

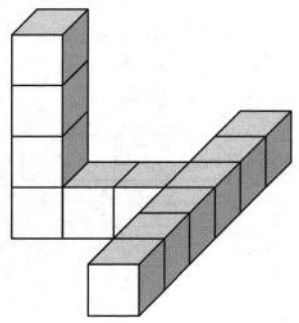

（　　）個

5.

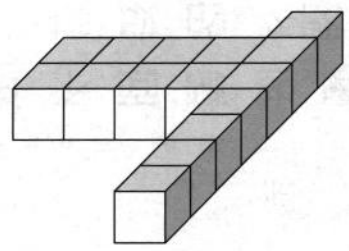

（　　）個

6.

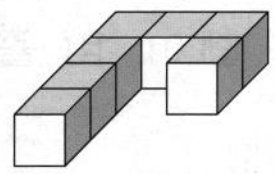

（　　）個

拿出 堆一堆，用了幾個 ？每格 2 分，共 6 分

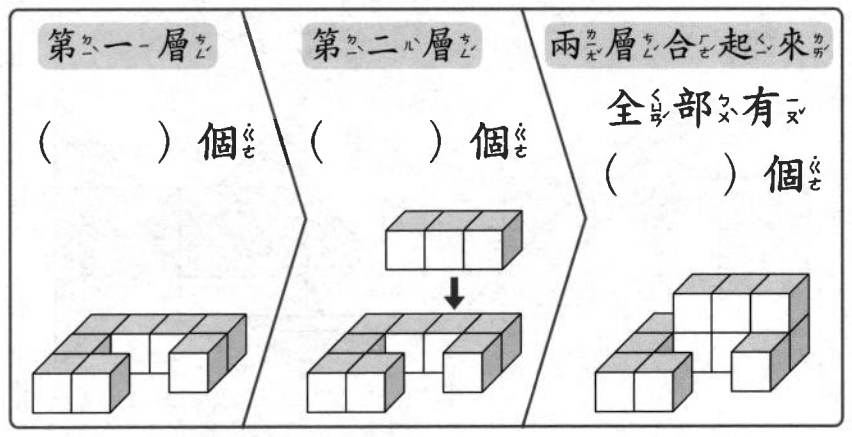

版權所有・翻印必究